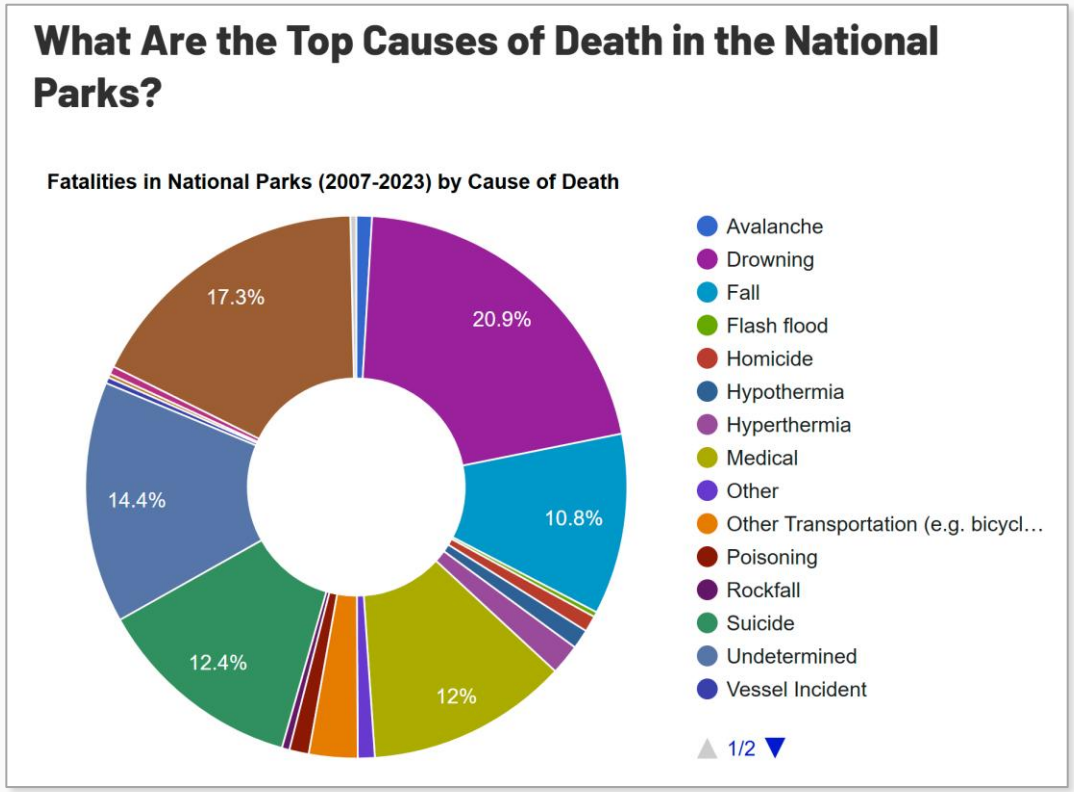

Supplementary information
In the original source, the remaining legend items were viewable by clicking the ▼ symbol.

1. **Examine the chart. Briefly describe any design choices (chart type, formatting, etc.) that you feel contribute positively to the readability of the chart.**

   Type answer here

2. **Briefly describe any design choices that you feel contribute negatively to the readability of the chart.**

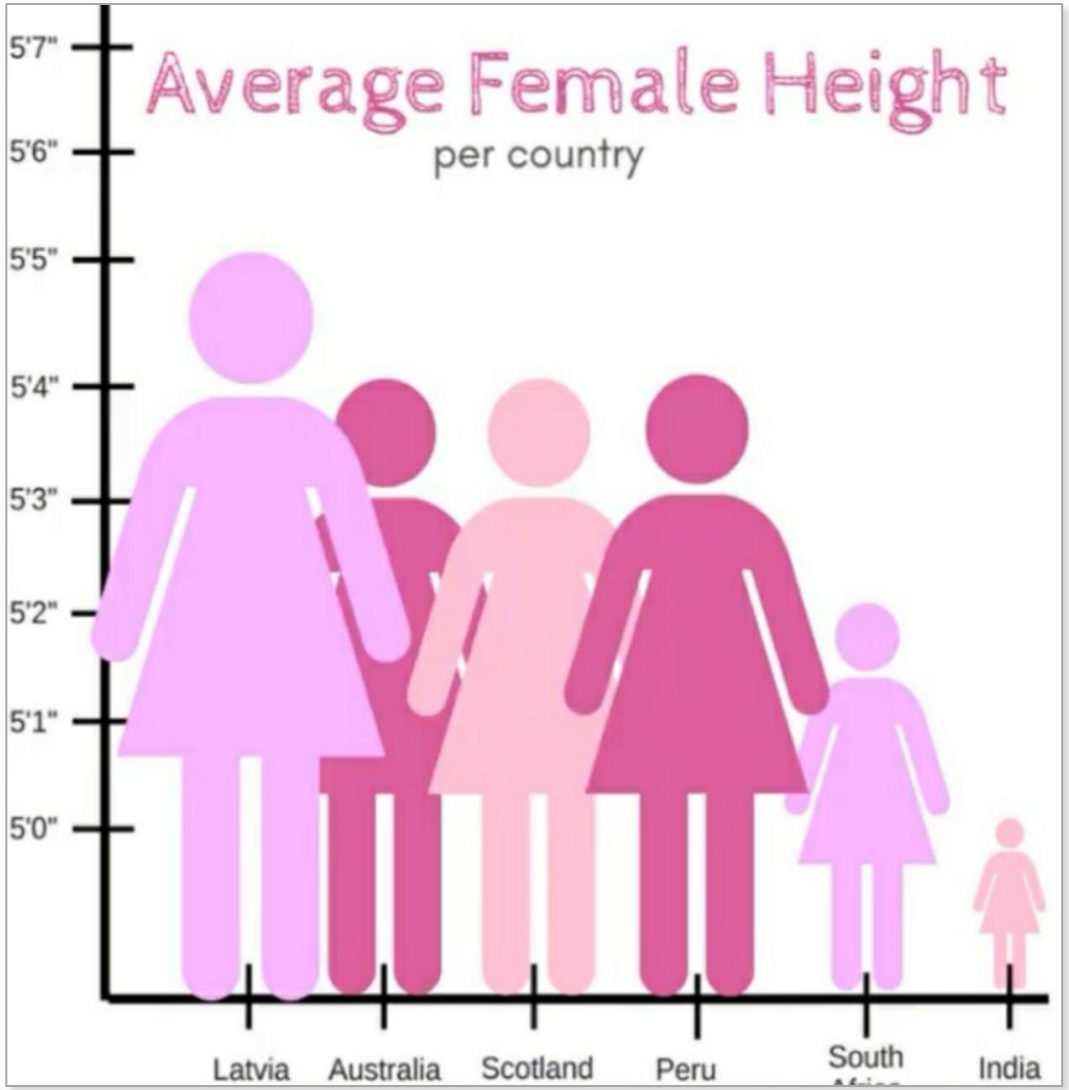

1. **Examine the chart. Briefly describe any design choices (chart type, formatting, etc.) that you feel contribute positively to the readability of the chart.**

   Type answer here

2. **Briefly describe any design choices that you feel contribute negatively to the readability of the chart.**

More questions on next slide

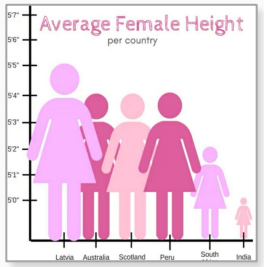

3. **If the average person were asked to examine this chart for a few seconds and summarise what they have learned, what do you think they would say?**

4. **If the average person were asked to examine this chart for a few minutes, do you think their answer to (3) would change? Explain.**

5. **How might you amend or redesign the chart so that it conveys its primary message efficiently and does not mislead the audience?**

1. **Examine the chart. Identify any elements that you feel could cause the audience to acquire an inaccurate impression. Explain.**

   Type answer here

2. **How might you redesign the chart so that it conveys its primary message efficiently and does not mislead the audience?**

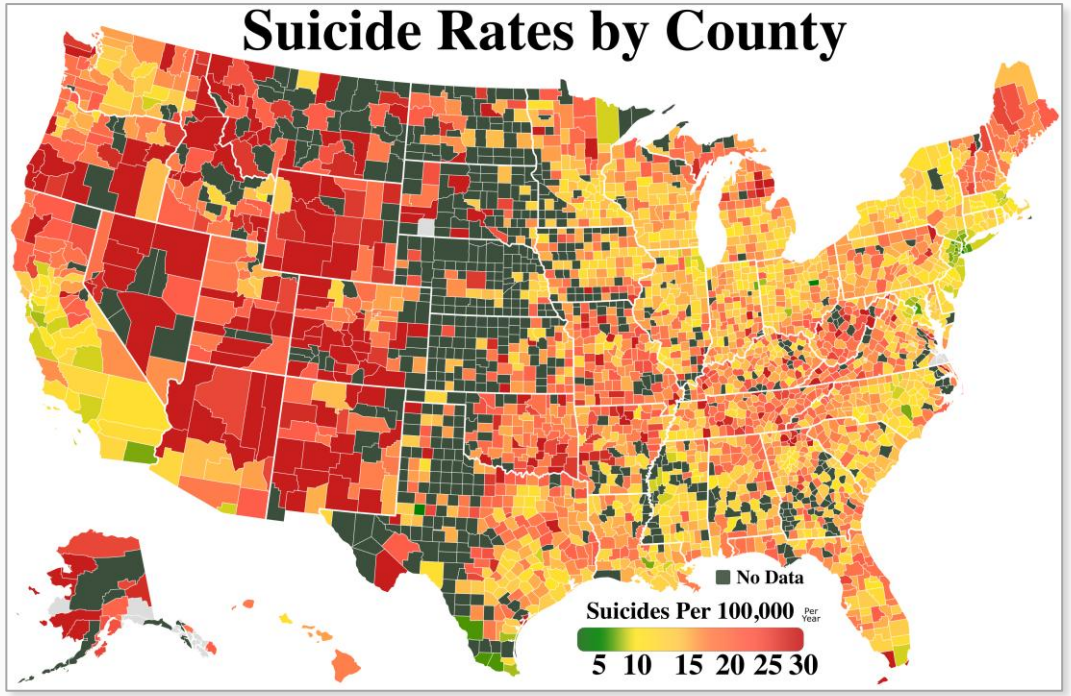

1. **Examine the chart. Briefly describe any design choices (chart type, formatting, etc.) that you feel contribute positively to the readability of the chart.**

   Type answer here

2. **Briefly describe any design choices that you feel contribute negatively to the readability of the chart.**

More questions on next slide

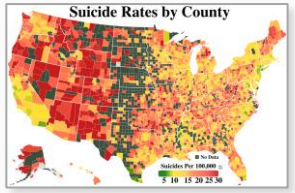

3. If the average person were asked to examine this chart for a few seconds and summarise what they have learned, what do you think they would say?

4. If the average person were asked to examine this chart for a few minutes, do you think their answer to (3) would change? Explain.

5. How might you amend or redesign the chart so that it conveys its primary message efficiently and does not mislead the audience?

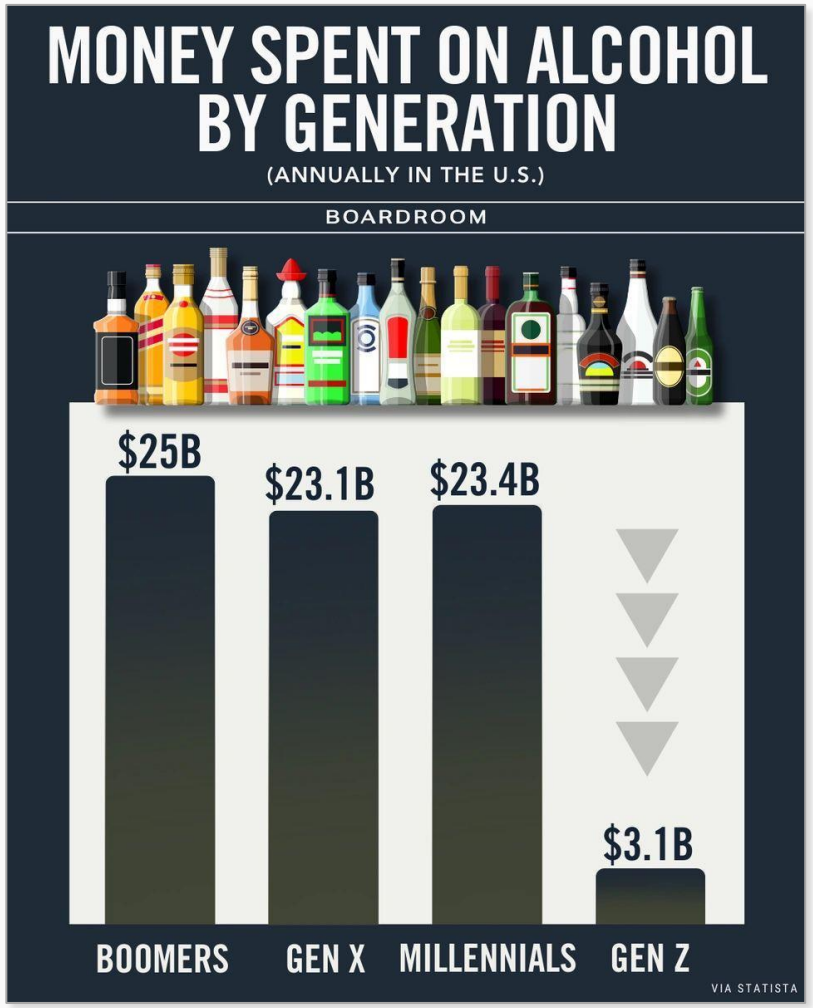

Supplementary information
This chart was published in 2023 based on survey data collected in 2022.

1. **Examine the chart. Briefly describe any design choices (chart type, formatting, etc.) that you feel contribute positively to the readability of the chart.**

   Type answer here

2. **Briefly describe any design choices that you feel contribute negatively to the readability of the chart.**

More questions on next slide

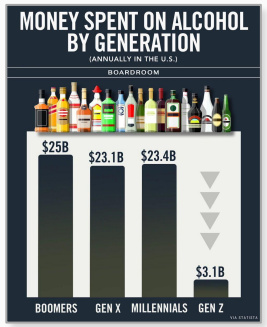

3. **If the average person were asked to examine this chart for a few seconds and summarise what they have learned, what do you think they would say?**

4. **If the average person were asked to examine this chart for a few minutes, do you think their answer to (3) would change? Explain.**

5. **How might you amend or redesign the chart so that it conveys its primary message efficiently and does not mislead the audience?**

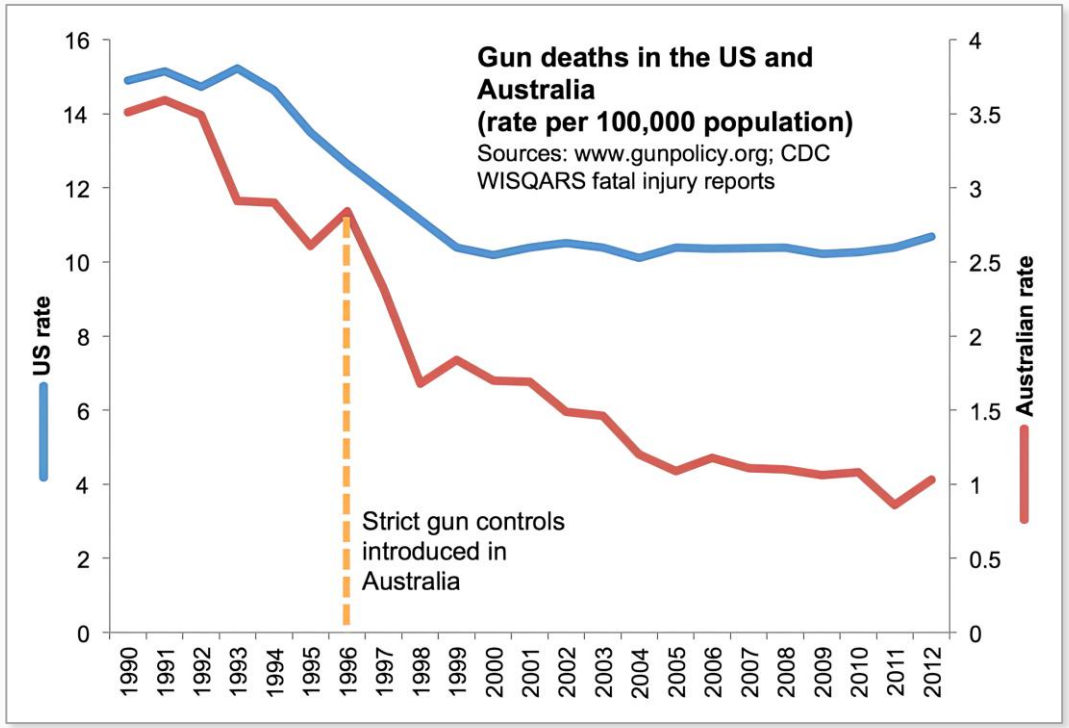

1. **Examine the chart. Briefly describe any design choices (chart type, formatting, etc.) that you feel contribute positively to the readability of the chart.**

   Type answer here

2. **Briefly describe any design choices that you feel contribute negatively to the readability of the chart.**

More questions on next slide

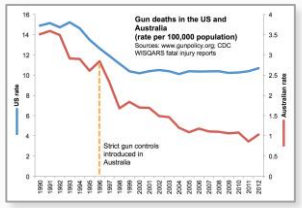

3. **If the average person were asked to examine this chart for a few seconds and summarise what they have learned, what do you think they would say?**

4. **If the average person were asked to examine this chart for a few minutes, do you think their answer to (3) would change? Explain.**

5. **How might you amend or redesign the chart so that it conveys its primary message efficiently and does not mislead the audience?**

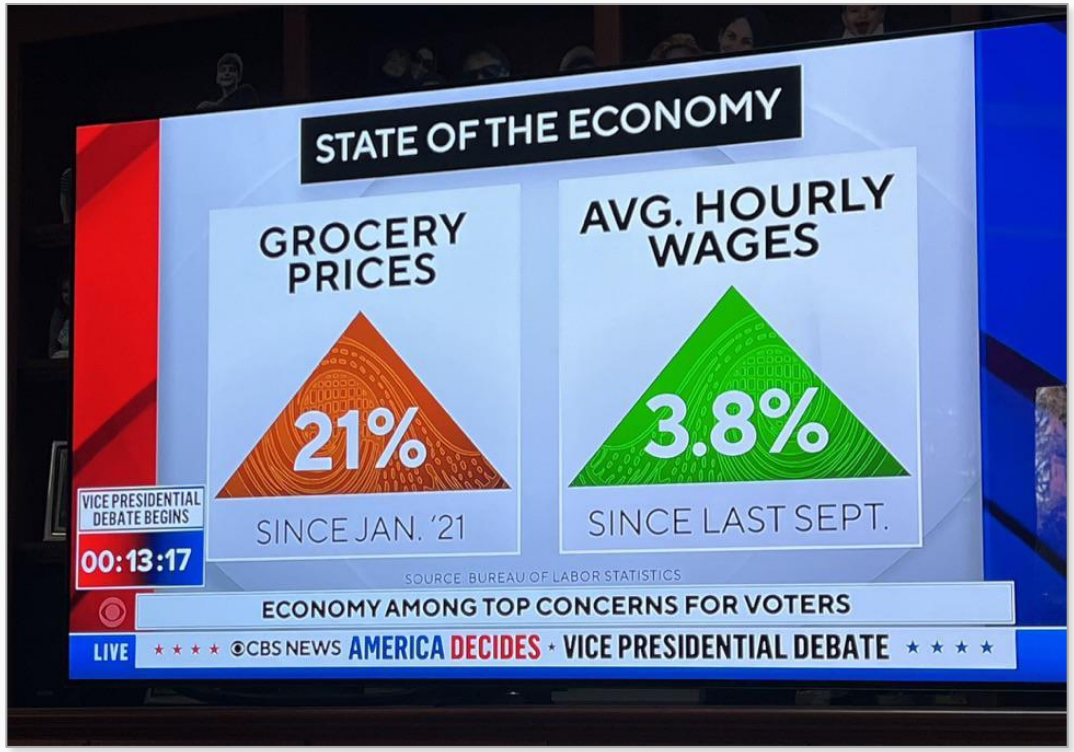

1. **Examine the chart. Identify any elements that you feel could cause the audience to acquire an inaccurate impression. Explain.**

   Type answer here

2. **How might you redesign the chart so that it conveys its primary message efficiently and does not mislead the audience?**

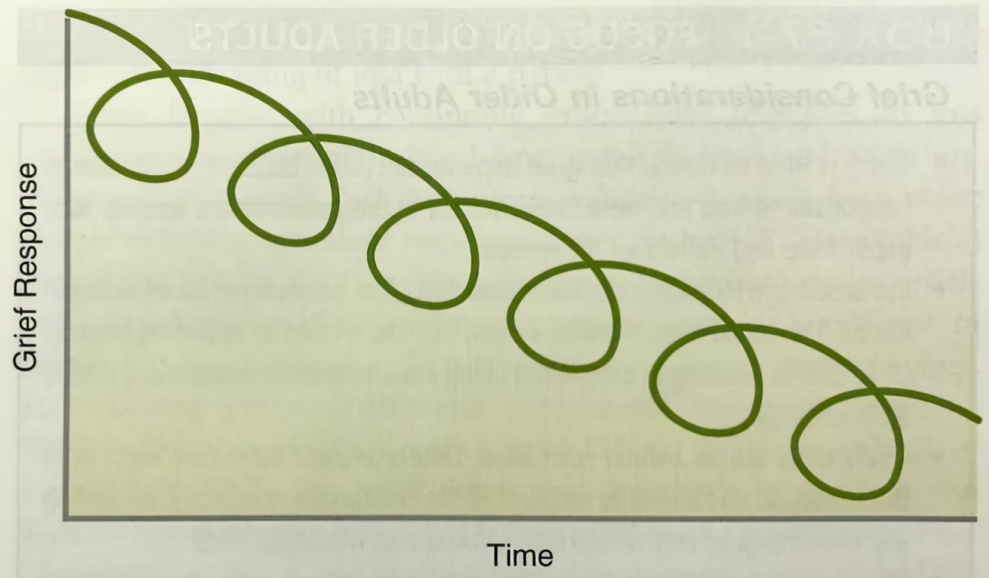

FIGURE 37-1 Cyclical nature of a normal grief response over time.

1. **Examine the chart. Explain what is wrong.**

   Type answer here

2. **Suggest what a more appropriate chart might look like.**

Relationship Between Female Labour Force Participation Rate and Fertility Rate

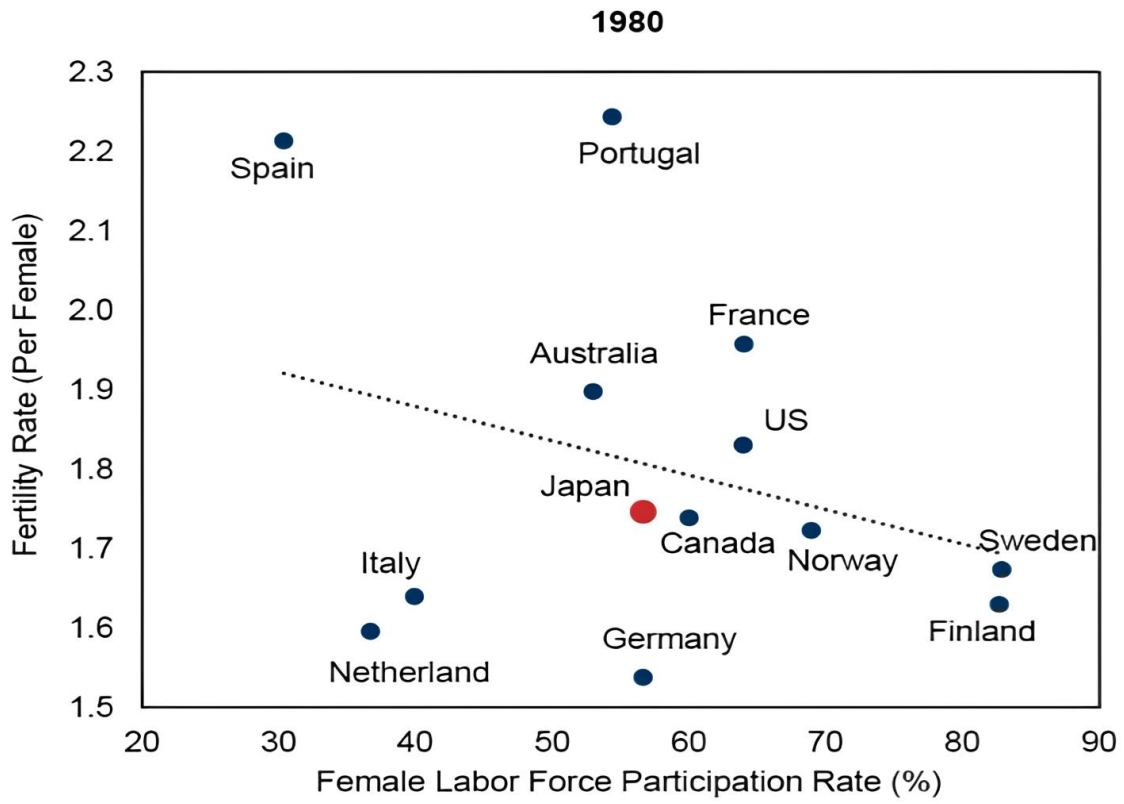

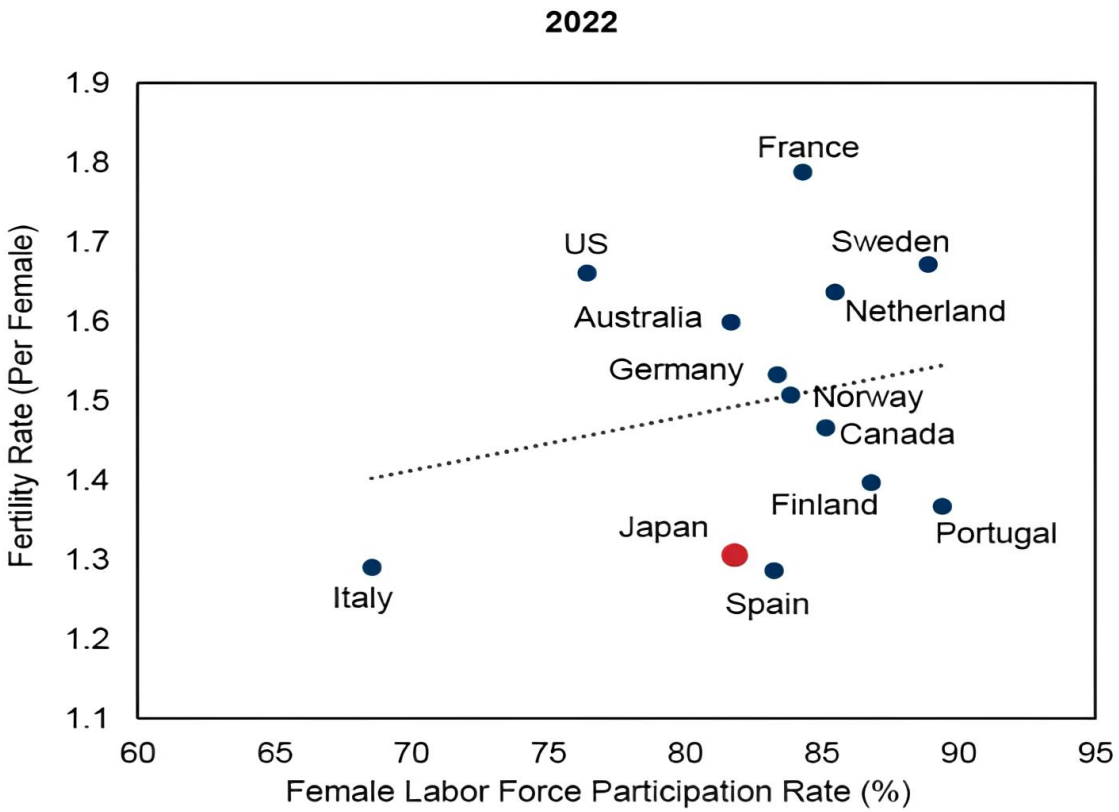

Questions on next slide

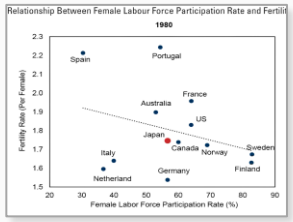

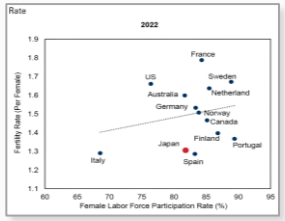

1. **Examine the charts on the previous slide. Identify any elements that you feel could cause the audience to acquire an inaccurate impression. Explain.**

   Type answer here

2. **How might you amend or redesign the charts so that they convey their primary message efficiently and do not mislead the audience?**

create a chart of when intel cpus were released

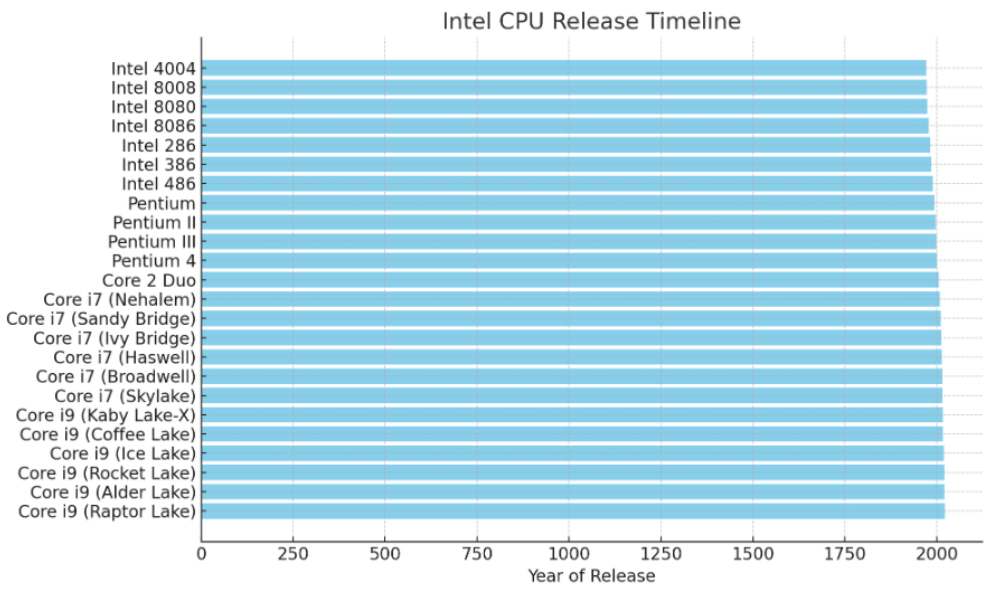

Here is a horizontal bar chart showing the timeline of Intel CPU releases from the Intel 4004 in 1971 up to the Core i9 (Raptor Lake) in 2022. Each bar represents the year in which the corresponding Intel CPU model was released. [>_]

Supplementary information

This chart was created by an AI.

1. **Examine the chart. Identify any design choices that you feel are irregular or confusing.**

   Type answer here

2. **How might you amend or redesign the chart so that it conveys its primary message efficiently? Optionally, also propose some additional relevant information that could be plotted on the chart.**

The Relative Size of Particles

Human Hair
50-180 Microns Wide

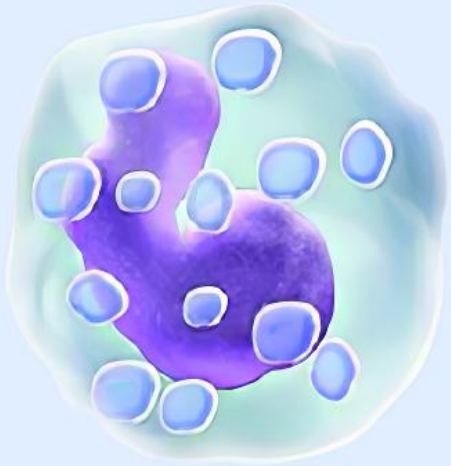

White Blood Cell
25 µm

Red Blood Cell
7-8 µm

E. coli
2 µm

SARS-CoV-2
0.06-0.14 µm

Questions on next slide

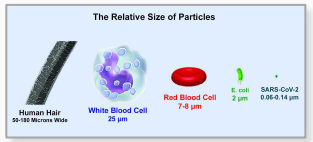

1. **Examine the chart on the previous slide. Identify any elements that you feel could cause the audience to acquire an inaccurate impression. Explain.**

   Type answer here

2. **How might you amend or redesign the chart so that it conveys its primary message efficiently and does not mislead the audience?**

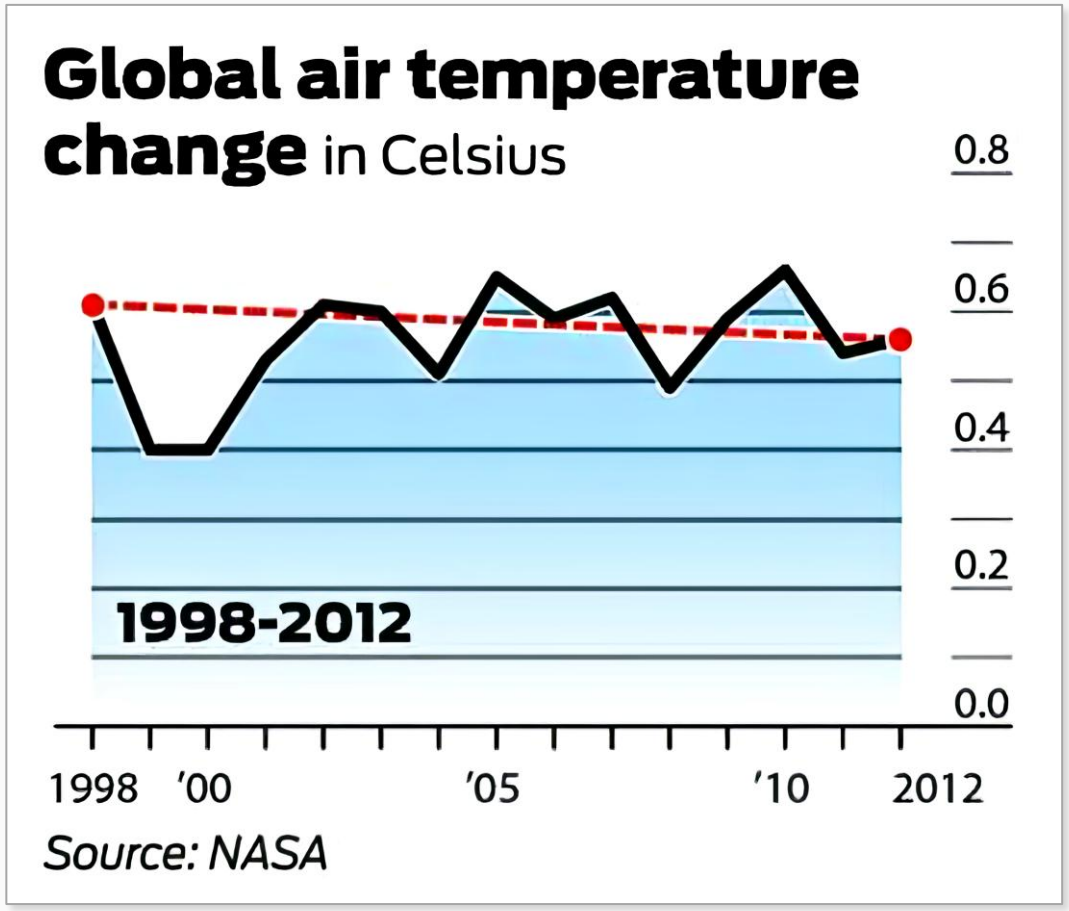

Supplementary information
This chart was created in 2012.

1. **Examine the chart. Why do you think the author added the red dashed line?**

   Type answer here

2. **This chart was created in 2012. Do you believe the start date of the chart is appropriate? Explain.**

More questions on next slide

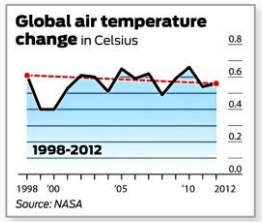

3. **How might you amend or redesign the chart so that it conveys its primary message efficiently and does not mislead the audience? Mention the red dashed line and the start date in your answer.**

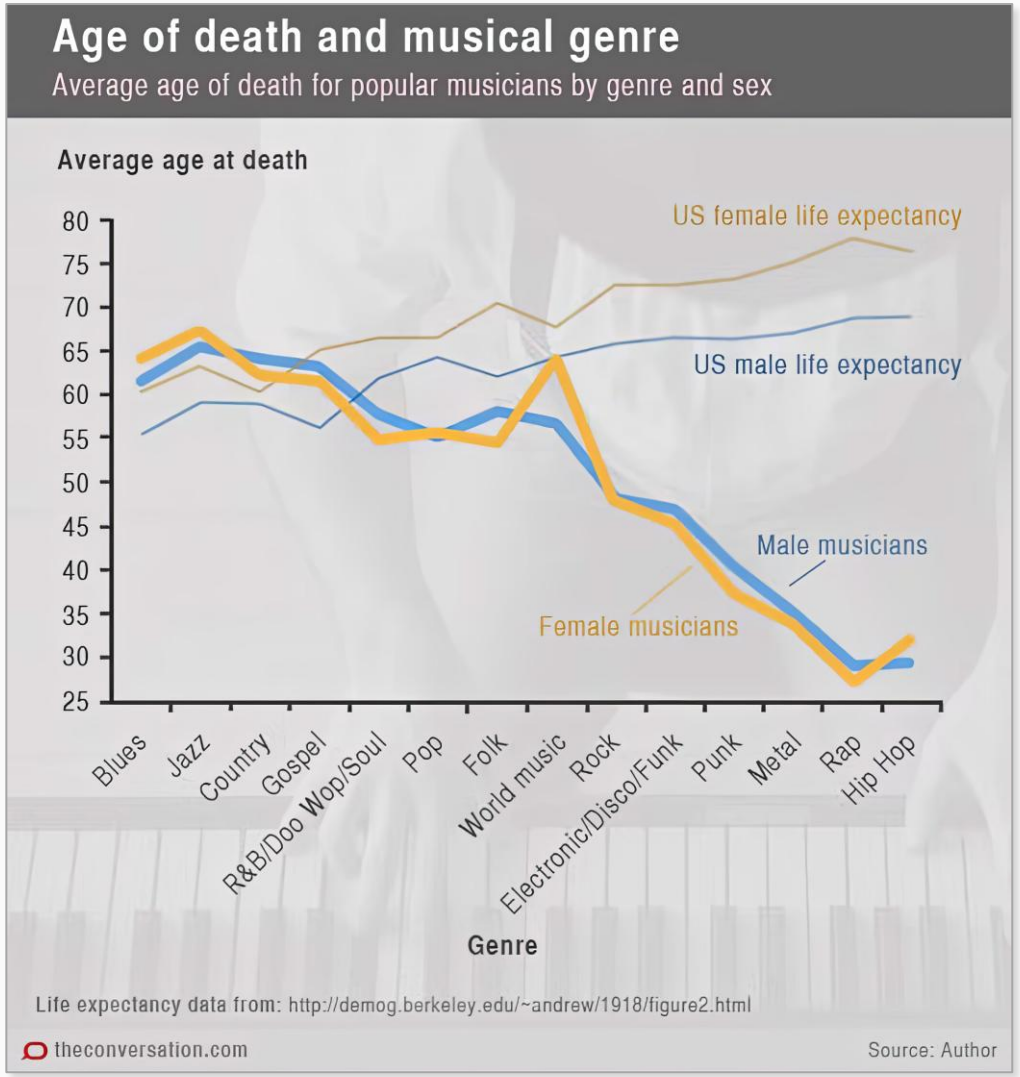

1. **Examine the chart. Briefly describe any design choices (chart type, formatting, etc.) that you feel contribute positively to the readability of the chart.**

   Type answer here

2. **Briefly describe any design choices that you feel contribute negatively to the readability of the chart.**

More questions on next slide

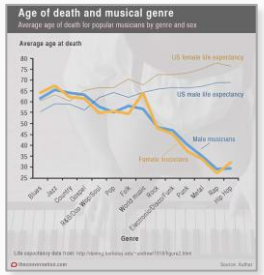

3. If the average person were asked to examine this chart for a few seconds and summarise what they have learned, what do you think they would say?

4. If the average person were asked to examine this chart for a few minutes, do you think their answer to (3) would change? Explain.

5. How might you amend or redesign the chart so that it conveys its primary message efficiently and does not mislead the audience?